Restricted use

SEAG
Entrance Assessment

Practice Paper 1

GL Assessment®

English – Practice Test

In this question there is either **one** punctuation mistake or **no** punctuation mistake. Find the group of words with the mistake in it and mark its letter on your answer sheet.
If there is no mistake, mark N.

P1

Above all else, you must make sure you take your Education seriously.

A B C D

In this question you have to choose the **best** word to complete the sentence, so that it makes sense and is written in correct English. Choose the **best** answer and mark its letter on your answer sheet.

P2

At dinner, Mum noticed that Patrick hadn't eaten

the	this	a	an	that	thing.
A	B	C	D	E	

In this question there is either **one** spelling mistake or **no** spelling mistake. Find the group of words with the mistake in it and mark its letter on your answer sheet. **If there is no mistake, mark N.**

P3

Recieving praise was a completely new and welcome experience for Holly.

A B C D

Read this passage to yourself.

> On the night we speak of all the children were once more in bed. It happened to be Nana's evening off, and their mother had bathed them and sung to them till one by one they had let go her hand and slid away into the land of sleep.
>
> All were looking so safe and cosy that she smiled at her fears now and sat down tranquilly by the fire to sew.

Answer this question. Choose **one** answer from the options below and mark its letter on your answer sheet.

P4

Which of the following is true about the children's bedtime routine?

A They brushed their teeth and said goodnight to their mother.
B They washed, then their mother sang them to sleep.
C They washed and then sang songs before bed.
D Their mother read them a bedtime story.
E They told each other stories before falling asleep.

For this question, you have to **write your answer** in the box provided on your answer sheet (box P5).

P5

Which **one word** from the passage means 'snug'.

END OF ENGLISH PRACTICE TEST
Do not turn over until you are told to do so

P6



What is the time shown on the clock?

A 5:15 **B** 4:35 **C** 3:35 **D** 5:17 **E** 3:25

P7

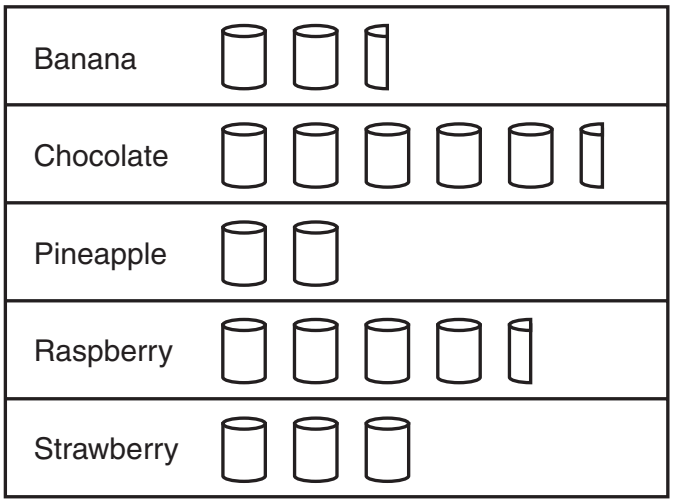

The pupils of a school were asked to vote for their favourite milkshake.
This pictogram shows the results.
20 pupils voted for Pineapple.

How many voted for Raspberry?

A 55 **B** 40 **C** 35 **D** 45 **E** 50

P8

Mrs Moore plants 3 rows of cabbages.
There are 36 cabbages in each row.

How many cabbages does she plant?

A 108 **B** 96 **C** 39 **D** 12 **E** 98

For these questions you have to **write your answers** in the boxes provided on your answer sheet (box P9 and P10). The units of measurement have been given.

P9

20% of the days in November were dry.
There are 30 days in November.

How many days in November were dry?

P10

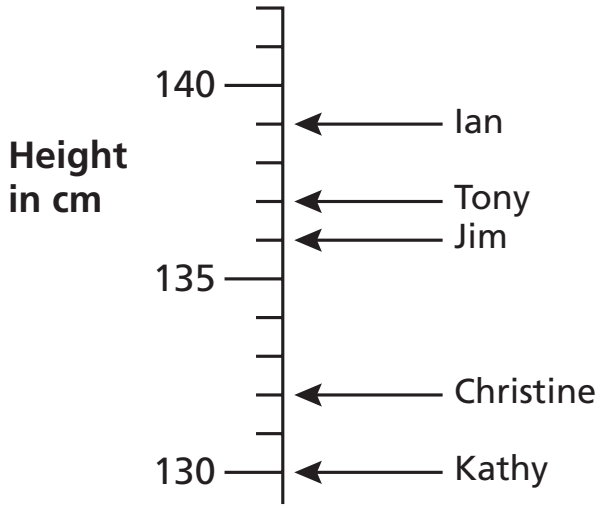

This chart shows the height of five children.

How much shorter is Kathy than Christine?

END OF MATHS PRACTICE TEST
Do not turn over until you are told to do so

English – Main Test

In this exercise there are some mistakes with **punctuation** or use of **capital letters**. On each numbered line there is either **one** mistake or **no** mistake. Find the group of words with the mistake in it and **mark its letter on your answer sheet**. **If there is no mistake, mark N.**

Punctuation Exercise

1 ‘Help! Help! Has anyone seen my cat,’ cried the old woman.

A B C D

2 Isnt it strange? Every time Dylan’s around, things go missing.

A B C D

3 ‘I’d rather you didn’t do that,’ I said. If we break it, we’re in trouble.’

A B C D

4 Long before we arrived, we’d decided how to make Aisha’s birthday special.

A B C D

5 The most ancient vehicle in the country Mr O’Leary’s car – roared and banged along the street.

A B C D

In this exercise you have to choose the **best** word, or **group of words**, to complete each numbered line so that the passage makes sense and is written in correct English. Choose the best answer and **mark its letter on your answer sheet**.

Grammar Exercise

6 The horses bolted towards the stable as

quick	rapid	fast	faster	speedy
A	B	C	D	E

as their legs could carry them.

7

Who's	Whose	Who	What	Why
A	B	C	D	E

parents and carers have agreed to come and assist with the craft activities at the open day?

8 We crept

across	through	on	within	in
A	B	C	D	E

the lawn under the cover of darkness.

9 You will ruin the brand new bicycle you've just been given

although	unless	despite	because	so
A	B	C	D	E

you take better care of it.

10 It was raining and the children

start	will begin	are starting	were starting	begin
A	B	C	D	E

to get restless.

In this exercise there are some **spelling** mistakes. On each numbered line there is either **one** mistake or **no** mistake. Find the group of words with the mistake in it and **mark its letter on your answer sheet**. **If there is no mistake, mark N.**

Spelling Exercise

11 Let's go to the mountains this summer – that would be my preferance.

A B C D

12 The marvelous meal could not have been any more delicious.

A B C D

13 By the end of the summer, the group had learned the real value of tolerance.

A B C D

14 The silver chain was undoutedly a symbol of his mother's constant love.

A B C D

15 As the sun set in a sombre sky, the building looked noticably taller

A B C

with the elongated shadows.

D

Read the **whole** passage carefully, then answer the questions that follow.

The Conjurer's Revenge

'Now, ladies and gentlemen,' said the conjurer, 'having shown you that the cloth is absolutely empty, I will proceed to take from it a bowl of goldfish. Presto!'

All around the hall people were saying, 'Oh, how wonderful! How does he do it?' But the Quick Man on the front seat said in a big whisper to the people near him, 'He-had-it-up-his-sleeve'.

Then the people nodded brightly at the Quick Man and said, 'Oh, of course', and everybody whispered round the hall, 'He-had-it-up-his-sleeve'.

'My next trick,' said the conjurer, 'is the famous Hindustani rings. You will notice that the rings are apparently separate; at a blow they all join (clang, clang, clang) – Presto!'

There was a general buzz of stupefaction till the Quick Man was heard to whisper, 'He-must-have-had-another-lot-up-his-sleeve'. Again everybody nodded and whispered, 'The-rings-were-up-his-sleeve'.

The brow of the conjurer was clouded with a gathering frown. 'I will now,' he continued, 'show you a most amusing trick by which I am enabled to take any number of eggs from a hat. Will some gentleman kindly lend me his hat? Ah, thank you – Presto!'

He extracted seventeen eggs, and for thirty-five seconds the audience began to think that he was wonderful. Then the Quick Man whispered along the front bench, 'He-has-a-hen-up-his-sleeve', and all the people whispered it on. 'He-has-a-hen-up-his-sleeve.' The egg trick was ruined.

It went on like that all through. It transpired from the whispers of the Quick Man that the conjurer must have concealed up his sleeve, in addition to the rings, hens, several packs of cards, a loaf of bread, a doll's cradle, a live guinea-pig, a fifty-cent piece, and a rocking-chair.

The reputation of the conjurer was rapidly sinking below zero. At the close of the evening he rallied for a final effort. 'Ladies and gentlemen,' he said, 'I will present

to you, in conclusion, the famous Japanese trick recently invented by the natives of Tipperary. Will you, sir,' he continued, turning toward the Quick Man, 'will you kindly hand me your gold watch?' It was passed to him.

'Have I your permission to put it into this mortar and pound it to pieces?' he asked savagely. The Quick Man nodded and smiled. The conjurer threw the watch into the mortar and grasped a sledge hammer from the table. There was a sound of violent smashing. 'He's-slipped-it-up-his-sleeve,' whispered the Quick Man.

'Now, sir,' continued the conjurer, 'will you allow me to take your handkerchief and punch holes in it? Thank you. You see, ladies and gentlemen, there is no deception; the holes are visible to the eye.' The face of the Quick Man beamed. This time the real mystery of the thing fascinated him. 'And now, sir, will you kindly pass me your silk hat and allow me to dance on it? Thank you.'

The conjurer made a few rapid passes with his feet and exhibited the hat crushed beyond recognition. 'And will you now, sir, take off your celluloid collar and permit me to burn it in the candle? Thank you, sir. And will you allow me to smash your spectacles for you with my hammer? Thank you.'

By this time the features of the Quick Man were assuming a puzzled expression. 'The thing beats me,' he whispered, 'I don't see through it a bit.' There was a great hush upon the audience. Then the conjurer drew himself up to his full height and, with a withering look at the Quick Man, he concluded:

'Ladies and gentlemen, you will observe that I have, with this gentleman's permission, broken his watch, burnt his collar, smashed his spectacles, and danced on his hat. If he will give me the further permission to paint green stripes on his overcoat, or to tie his suspenders in a knot, I shall be delighted to entertain you. If not, the performance is at an end.'

And amid a glorious burst of music from the orchestra the curtain fell, and the audience disappeared, convinced that there are some tricks, at any rate, that are not done up the conjurer's sleeve.

Please go on to the next page >>>

Please answer these questions. (Look at the passage again if you need to.)
You should choose the **best** answer and mark its letter on your answer sheet.

16 **What does this story start with?**

A narrative
B a question
C description
D a flashback
E direct speech

17 **'The brow of the conjurer was clouded with a gathering frown.'** (line 14)

What does this suggest about the conjurer?

A He is beginning to become annoyed.
B He is hoping to impress the audience.
C He is starting to feel disappointment.
D He is trying to silence the Quick Man.
E He is striving to focus on his egg trick.

18 **What is the effect of the list in lines 23 to 25?**

A It shows that the conjurer was a talented man.
B It shows how much whispering the Quick Man did.
C It shows all the different tricks the conjurer did.
D It shows just how monotonous the magic show was.
E It shows how much the conjurer had up his sleeve.

19 **Look at lines 26–30.**

What does the crowd think of the conjurer in this paragraph?

A They think he is extraordinary.
B They are unsure about his tricks.
C They are very annoyed with him.
D They admire his talent and skill.
E They have a poor opinion of him.

20

'…crushed beyond recognition.' (lines 40–41)

What does this tell you about the Quick Man's hat?

A It was trampled completely flat.
B It was put on by the conjurer.
C It looked like a different kind of hat.
D It was hard to tell what it was.
E It looked better on the Quick Man.

21

Why does the Quick Man let the conjurer break his watch, burn his collar, smash his spectacles and dance on his hat?

A because he understands what is really happening
B because he is pretending he does not mind
C because he is showing off to the audience
D because he wants to embarrass the conjurer
E because he thinks the conjurer is just doing a trick

22

Why is this story called 'The Conjurer's Revenge'?

A because the Quick Man defeats the conjurer
B because the conjurer gets his own back
C because the crowd turns against the conjurer
D because the conjurer deceives the crowd
E because the Quick Man manipulates the people

For these questions you have to **write your answers**, neatly, in the boxes provided on your answer sheet.

23

Look at lines 1–21. How many tricks does the conjurer do in this part of the story?

24

What was the Quick Man's hat made of?

25 **Which one word in lines 22–25 means the same as 'hidden'?**

26 **Which one word in lines 53–55 means the same as 'went on their way'?**

27 **Which one part of speech are the following as they appear in the passage?**

around (line 3)**, from** (line 16)**, below** (line 26)**, into** (line 31)

28 **Which part of speech is 'passes' as it appears in the passage?** (line 40)

29

There are 415 people at a pantomime.
168 are adults and the rest are children.

How many children are there?

A 257 **B** 353 **C** 357 **D** 253 **E** 247

30

Children's Favourite Pies

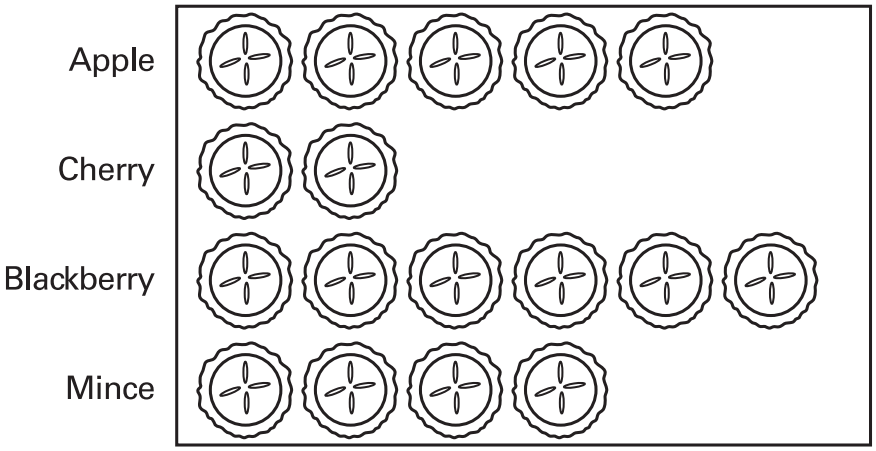

Each child chose one of four types of pie as his or her favourite.
The results are shown in the pictogram above.

If 12 more children chose blackberry than chose cherry, how many children does each represent?

A 8 **B** 3 **C** 6 **D** 4 **E** 2

31

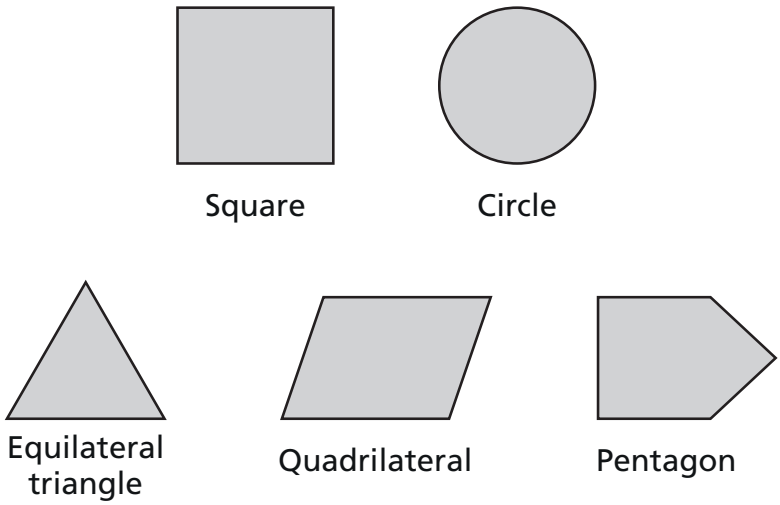

Which of these shapes has three lines of symmetry?

A Equilateral triangle
B Circle
C Pentagon
D Square
E Quadrilateral

32

Jay has these black socks and white socks.

What fraction of Jay's socks are black?

A $\frac{1}{3}$ **B** $\frac{1}{4}$ **C** $\frac{3}{4}$ **D** $\frac{4}{8}$ **E** $\frac{2}{3}$

33

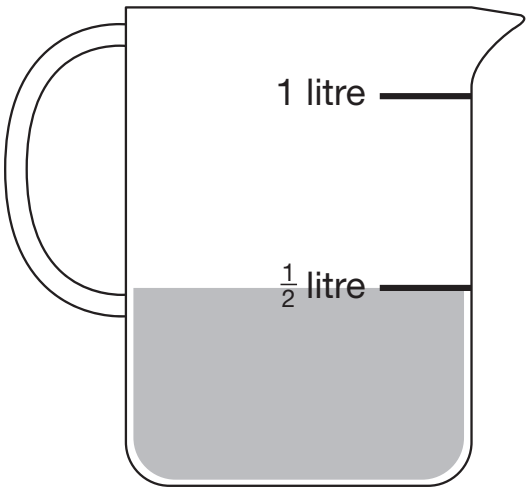

This jug contains half a litre of water.

How many 60 ml glasses can you fill using the water in the jug?

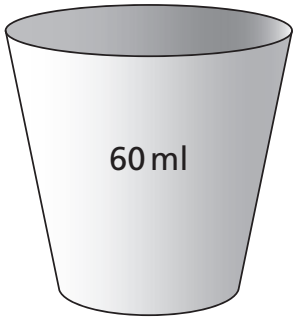

A 6 glasses
B 8 glasses
C 9 glasses
D 11 glasses
E 12 glasses

34

5 10 9 14 13 18 _____ _____

What are the next two numbers in this sequence?

A 15, 19 **B** 17, 21 **C** 16, 20 **D** 17, 22 **E** 15, 20

35

Which fraction is NOT equal to $^{3}/_{12}$?

A $^{1}/_{4}$ **B** $^{2}/_{8}$ **C** $^{1}/_{9}$ **D** $^{4}/_{16}$ **E** $^{5}/_{20}$

36

Anisha pays for an item at the shop with a £2 coin.
She gets only one coin as her change.

Which of these amounts is NOT the cost of the item?

A £1.99 **B** £1.95 **C** £1.80 **D** £1.60 **E** £1.50

37

Which decimal is equivalent to 25%?

A 0.025 **B** 0.25 **C** 0.5 **D** 1.4 **E** 2.5

38



Maya has three small bags of crisps.
Tamlyn has one large bag of crisps.

Who has more crisps and by how many grams?

A Maya – 12 g more
B Tamlyn – 12 g more
C Tamlyn – 30 g more
D Maya – 32 g more
E Tamlyn – 32 g more

39

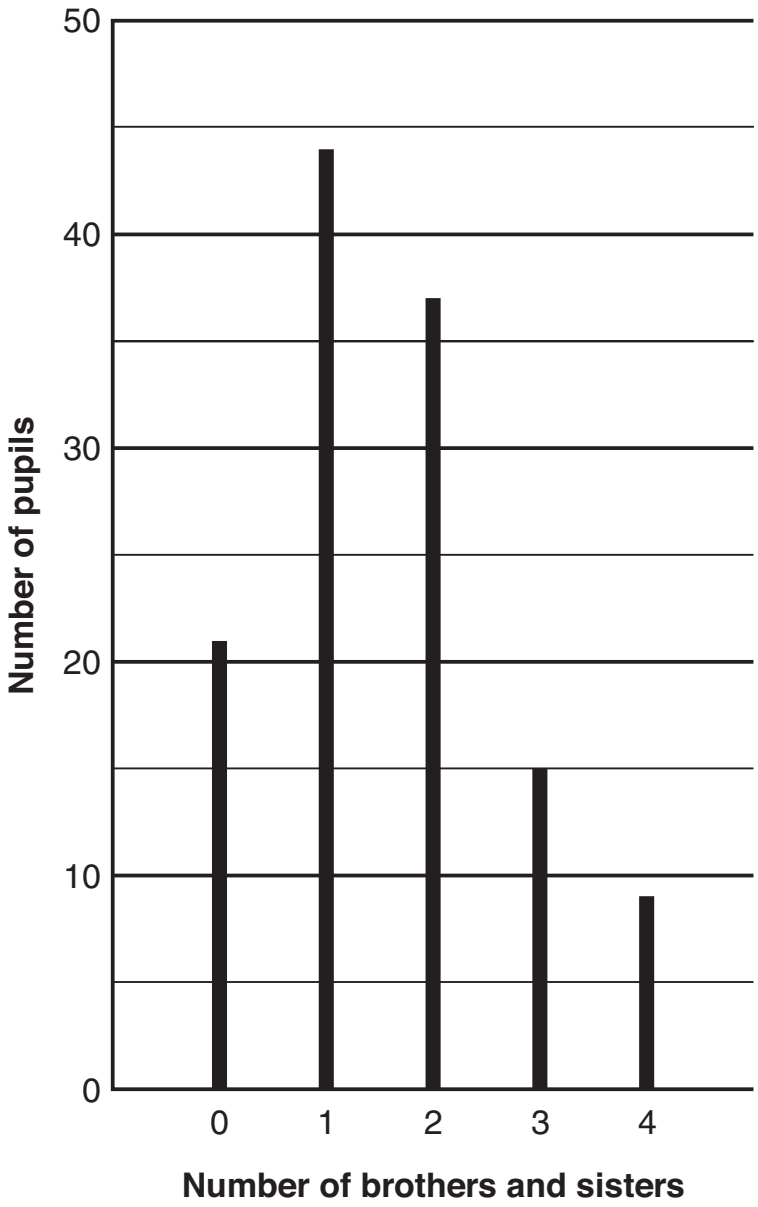

This bar chart shows how many brothers and sisters the pupils at a primary school have.

How many pupils have more than two brothers and sisters?

A 25 **B** 37 **C** 61 **D** 24 **E** 15

40

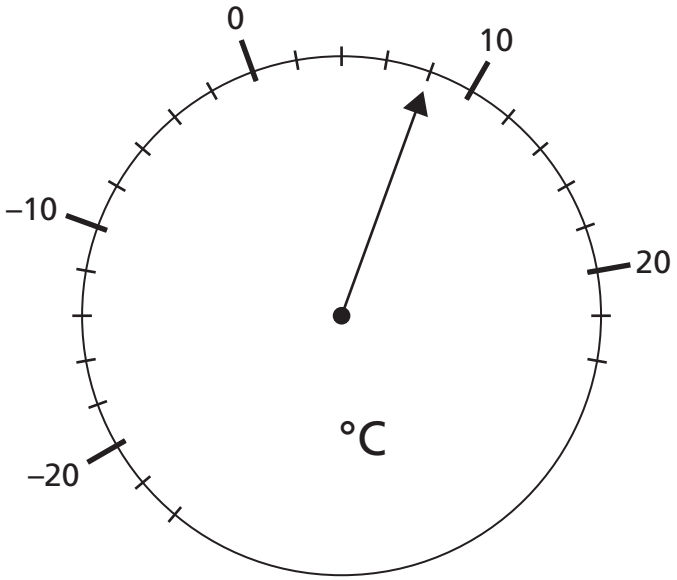

The thermometer shows the temperature at 10 am.
Six hours later it is 17 degrees colder.

What is the temperature at 4 pm?

A –8 °C **B** –9 °C **C** –10 °C **D** –11 °C **E** –13 °C

41

	Small	Medium	Large
Basic Pizza	£6.99	£8.49	£9.49
Each Topping	45p	60p	75p
Soft Drinks	69p	89p	99p

Mr Mitchell took his son to a pizza bar.
He ordered a medium pizza with three toppings and two large soft drinks.

How much did it cost him?

A £11.22
B £12.07
C £11.82
D £12.27
E £11.07

42



This pack contains five flavours of sweets:

lemon orange strawberry blackcurrant lime

There is an equal number of each flavour in the pack.
Evan does not like the strawberry or the lime sweets.
Evan takes a sweet at random.

What is the probability that Evan will get a sweet that he likes?

A 25% **B** 40% **C** 50% **D** 60% **E** 80%

43

6 Scones

100 g Margarine
100 g Flour
60 g Cheese
pinch of Baking Powder
Milk to mix

These are the ingredients for making six scones.

How much flour would you need to make 18 scones?

A 300 g
B 180 g
C 1200 g
D 1800 g
E 112 g

44

Each school day starts at 09:10 and finishes at 15:10 Monday to Friday. There are two breaks each day, one between 11:00 and 11:30 and another between 12:40 and 13:40.

What is the total time in minutes spent in lessons during each school day?

A 270 minutes
B 268 minutes
C 260 minutes
D 248 minutes
E 240 minutes

45

Route 137 from Monument to Bus Station AFTERNOON TIMETABLE		
Monument	1213	Other buses leave Monument at these times:
Grant's Farm	1221	
St Peter's Church	1230	1313
Green Lane	1238	1413
Cinema	1247	1513
Bear and Billet	1253	1613
Town Square	1258	1713
Bus Station	1304	1813
		and follow the same timings.

Danielle wants to take a bus from Grant's Farm to the Cinema. She must be at the Cinema by half past three in the afternoon.

What is the latest bus Danielle should catch at Grant's Farm?

A 1321 **B** 1421 **C** 1621 **D** 1521 **E** 1221

46

A square has an area of $64\,m^2$.

What is the length of one side?

A 6.4 m **B** 9 m **C** 16 m **D** 8 m **E** 7 m

47

The mean age of Ben and his two sisters is 9 years.

What will be their mean age in three years time?

A 12 years **B** 9 years **C** 10 years **D** 18 years **E** 15 years

48

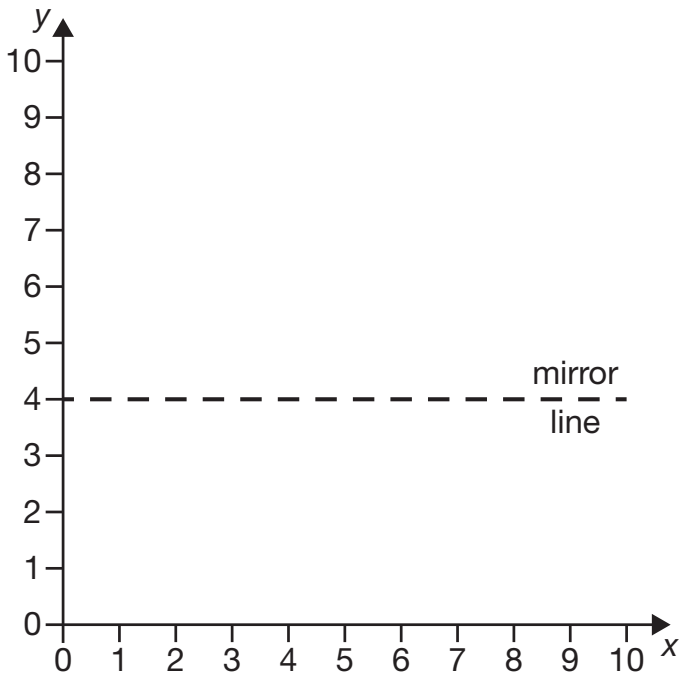

This mirror line is drawn on a coordinate grid.
The point (3 , 7) is reflected in the mirror line.

What are the coordinates of its reflection?

A (3 , 1) **B** (1 , 3) **C** (7 , 3) **D** (7 , 1) **E** (7 , 5)

49

Janet spends £1.10 on two pencils.
She spends £3.00 on two pens.

How much more does one pen cost than one pencil?

A £1.90 **B** 95p **C** 90p **D** 85p **E** 55p

50

Five children took part in a sports challenge.

Child	High Jump	Running	Ball Throwing
Victoria	98 cm	56 secs	8.3 m
Manjit	81 cm	48 secs	9.7 m
Jacob	93 cm	51 secs	10.8 m
Cameron	74 cm	63 secs	11.6 m
Satoshi	96 cm	68 secs	10.2 m

Points were awarded for each sport.

Position in sport	1st	2nd	3rd	4th	5th
Points awarded	5	4	3	2	1

The child who got the most points won the cup.

Who won the cup?

A Victoria
B Manjit
C Jacob
D Cameron
E Satoshi

For questions 51–56, you have to **write your answers** in the boxes provided on your answer sheet. The units of measurement have been given.

51

Tom weighs himself holding his cat.

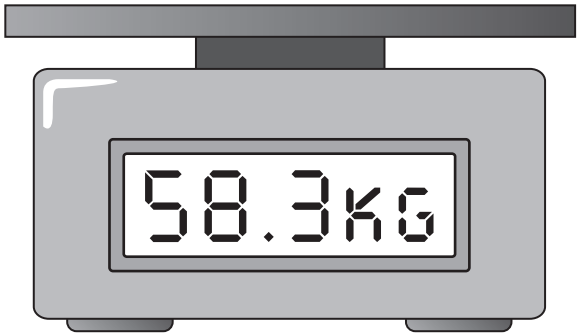

Tom weighs himself on his own.

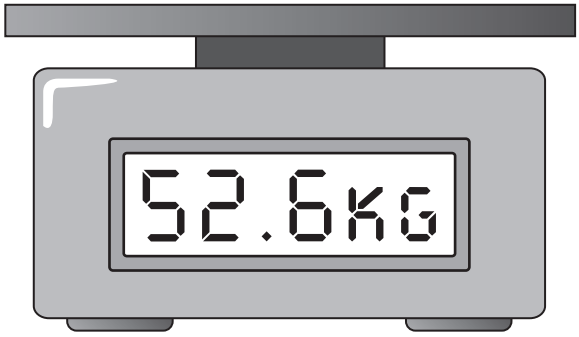

How much does Tom's cat weigh?

52

Shona was 5 minutes late for the 9.50 am bus.
She caught the next one at 10.15 am.

How long did she wait for the bus?

53

Five shapes are shown below:

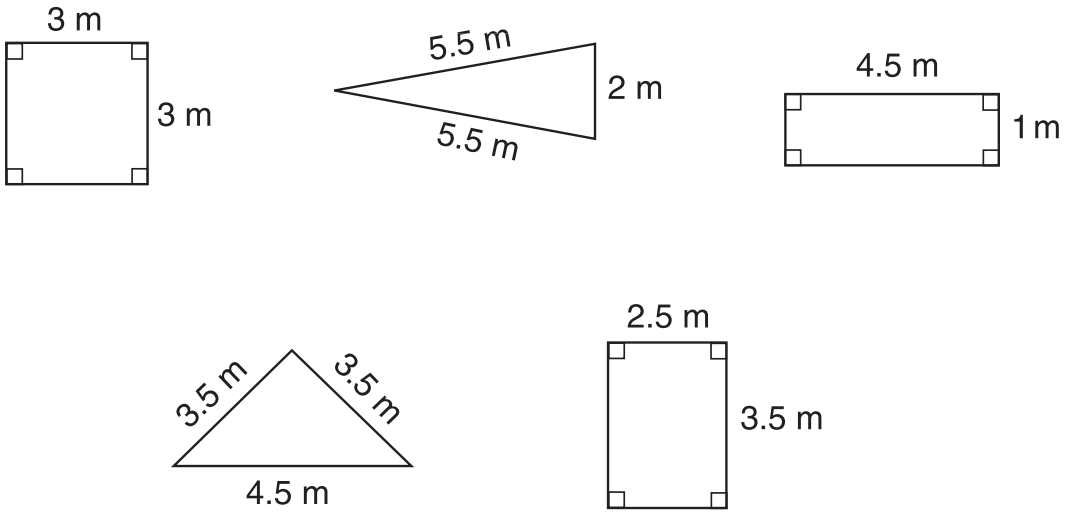

What is the perimeter of the shape that has the longest perimeter?

54

Bristol	142					
Leeds	177	315				
Leicester	66	186	154			
Manchester	130	260	66	142		
Norwich	259	336	280	193	297	
Southampton	206	119	368	215	334	305
	Birmingham	Bristol	Leeds	Leicester	Manchester	Norwich

The chart shows the distances in kilometres between some cities in England.

How far is it from Bristol to Manchester?

Please go on to the next page >>>

55

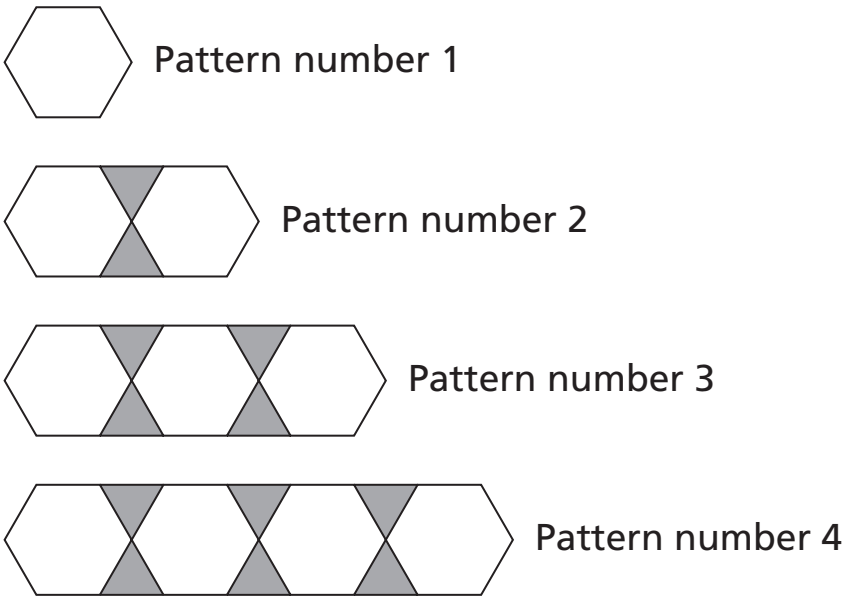

This pattern is made from hexagons and triangles.

In pattern 30 what is the total number of triangles?

56

Betty has a packet of 24 biscuits.
She eats $\frac{1}{3}$ of them on Wednesday and six more on Thursday.
On Friday she shares the remaining biscuits equally with Eli.

How many biscuits does Betty give Eli?

END OF TEST

Copyright © GL Assessment Limited, 2022.

GL Assessment Limited owns all intellectual property rights in the publication. GL Assessment Limited reserves all of its rights in the publication, including translation.

You are only allowed to use the publication in an exam environment in accordance with the Declaration of Use.

You are not allowed to do any of the following without GL Assessment Limited's permission:

- make a copy of it in any way (for example by hand, a photocopy or a photo on your phone)
- store a copy of it in any way (whether as a hard copy or electronic copy)
- send a copy of it in any way (whether as a hard copy or electronic copy)

The above restrictions apply to the publication as a whole or any part/section of it.

There is no arrangement in place with the Copyright Licensing Agency Limited (CLA) which would allow you to make a copy.

Confidentiality of these exam materials is key to preserving the integrity of the GL Assessment 11+. Any breach of the above, copying or other attempts to disseminate the test content will be actively pursued by GL Assessment through legal channels if necessary.

Published by GL Assessment, 1st Floor, Vantage London, Great West Road, Brentford TW8 9AG.

Typeset and printed in Great Britain.

1(06.22) PF