# SEAG
# Entrance Assessment

## Practice Paper 2

GL Assessment®

# English – Practice Test

In this question there is either **one** punctuation mistake or **no** punctuation mistake. Find the group of words with the mistake in it and mark its letter on your answer sheet.
**If there is no mistake, mark N**.

P1 The world's smallest dog is barely taller than a tin of tomatoes and weighs just sixteen ounce's.

A B C D

In this question you have to choose the **best** word to complete the sentence, so that it makes sense and is written in correct English. Choose the **best** answer and mark its letter on your answer sheet.

P2 My brother plays basketball with

| his | much | ours | he's | them |
|---|---|---|---|---|
| A | B | C | D | E |

friends on Saturdays.

In this question there is either **one** spelling mistake or **no** spelling mistake. Find the group of words with the mistake in it and mark its letter on your answer sheet. **If there is no mistake, mark N.**

P3 After a long jurney, the nomads settled at their new destination.

A B C D

Read this passage to yourself.

> Jasmine jumped out of bed as soon as her alarm sounded. She got up so quickly that it made her head spin and she had to sit down again. She walked over to her window and flung open her curtains to let in the bright light of morning. The sun was still rising over the trees and the last dew of dawn was still on the ground. Jasmine let out a deep breath and smiled. Today was going to be a great day.

Answer this question. Choose **one** answer from the options below and mark its letter on your answer sheet.

## P4

**What made Jasmine feel dizzy?**

**A** the bright sunlight
**B** walking to the window
**C** taking a deep breath
**D** getting out of bed quickly
**E** sitting down

For this question, you have to **write your answer** in the box provided on your answer sheet (box P5).

## P5

Which **one word** from the passage means 'threw'?



END OF ENGLISH PRACTICE TEST
Do not turn over until you are told to do so

## P6

The chart shows David's timetable for one morning.

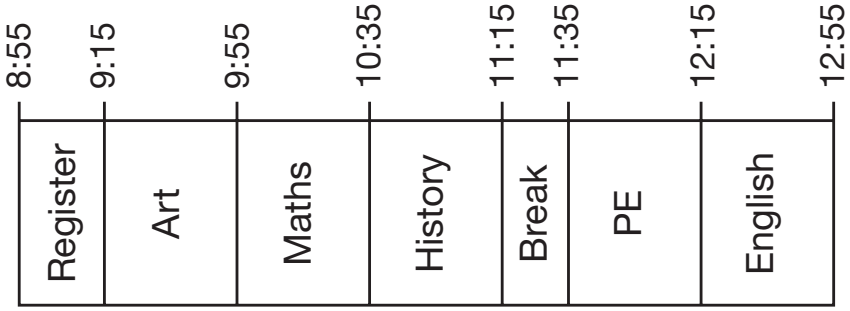


**What does David do after break?**

**A** PE **B** Maths **C** History **D** Art **E** English

## P7

Alia has four 5p coins, three 2p coins and two 10p coins.

**How much money is this altogether?**

**A** 17p **B** 26p **C** 37p **D** 46p **E** 56p

## P8

**Which number is the nearest in value to 675?**

**A** 685 **B** 775 **C** 665 **D** 680 **E** 575



Please go on to the next page >>>

For these questions you have to **write your answers** in the boxes provided on your answer sheet (boxes P9 and P10). The units of measurement have been given.

## P9

Look at this picture.

**How many eighths make one half?**

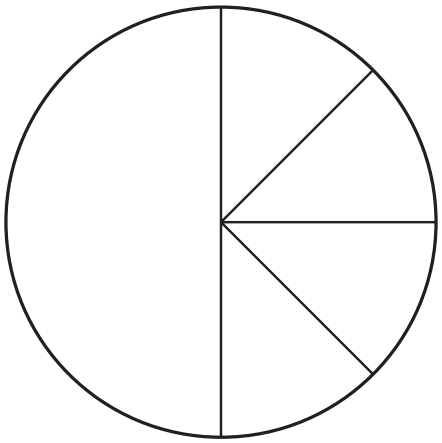

## P10

This chart shows how many people there were in a number of different cars.

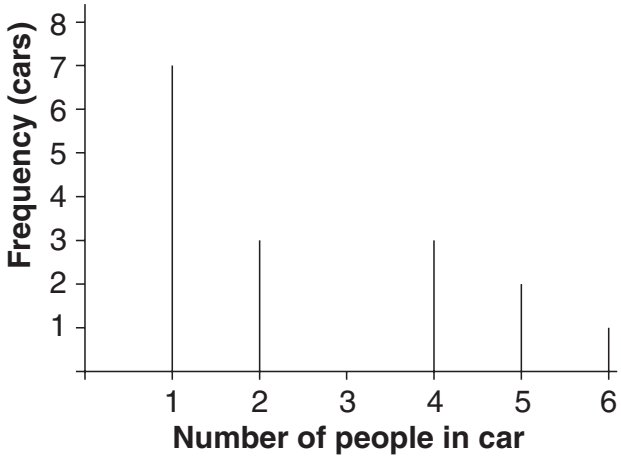


**In how many cars were there two people?**



END OF MATHS PRACTICE TEST
Do not turn over until you are told to do so

# English – Main Test

In these exercises there are some mistakes with **punctuation**. On each numbered line there is either **one** mistake or **no** mistake. Find the group of words with the mistake in it and **mark its letter on your answer sheet**. **If there is no mistake, mark N.**

## Punctuation Exercises

1 We were pleasantly surprised to discover that the new flavour kiwi and lemon)
A B C

was delicious.
D

2 Orcas, also known as killer whales use echolocation to talk with
A B C

other members of their pod.
D

3 Whats the point of all this anyway? I know she doesn't mean it.
A B C D

4 We could be looking at a major disaster when the volcano's next eruption begins.
A B C D

5 Our teacher told us that dog's have better eyesight than humans, although they
A B C

can't see colours as vividly.
D

In these exercises you have to choose the **best** word, or **group of words**, to complete each numbered line so that the passage makes sense and is written in correct English. Choose the best answer and **mark its letter on your answer sheet**.

## Grammar Exercises

6 You [ could have ] [ could of ] [ couldn't of ] [ hadn't of ] [ could not ]
A B C D E

come to the market with us if you had arrived in town earlier.

7 [ Because ] [ Despite ] [ Unless ] [ Although ] [ Since ] being called
A B C D E

giant, the extraordinary and unique giant panda is the second smallest bear.

8 The spacecraft travelled [ far ] [ near ] [ farther ] [ nearer ] [ farthest ]
A B C D E

than anyone had been before.

9 Janet is the girl [ what ] [ who's ] [ whom ] [ which ] [ whose ] sister won
A B C D E

the talent contest last month.

10 When you visit the country park, you must listen to Ms Malik and do exactly

what [ your ] [ you've ] [ you ] [ you're ] [ you'll ] instructed to do.
A B C D E

In this exercise there are some **spelling** mistakes. On each numbered line there is either **one** mistake or **no** mistake. Find the group of words with the mistake in it and **mark its letter on your answer sheet**. **If there is no mistake, mark N.**

# Spelling Exercises

11 The leisure centre had an insuffichent supply of complimentary towels.

A B C D

12 Fred was especialy concerned about his impact on the environment.

A B C D

13 Suddenly aware of the danger, the stag bounded towards the

A B C

fence in desparation.

D

14 The cat looked up at the dog hesitantly, unsure whether to fight or run away.

A B C D

15 Bob requested an appointment with the optitian on Wednesday.

A B C D

Read the **whole** passage carefully, then answer the questions that follow.

# Wildlife Film-making

For many people, Sunday evenings are spent relaxing in front of the television. Although this is traditionally a passive activity, since watching television helps us to unwind and clear our minds before the start of another hectic week, watching wildlife programmes has more recently become a completely different experience. Rather than gentle stories of favourite animals, programmes such as *Planet Earth 2*, aired in 2016, have become sources of excitement. Blogs and articles on the programme revealed there was increasing discussion not only about what animals were filmed but also about the technology behind the spectacular camera sequences. According to the narrator on the programme, Sir David Attenborough, the excitement people felt at watching each episode also had a deeper meaning. By focusing on the beauty and adaptability of nature, he argued, it gave people a break from their concerns about the environment whilst also educating them about the world around them.

How are programmes such as *Planet Earth 2* made? Are any special effects used to produce such stunning results? Well, it seems that producing a programme of this quality is anything but simple. The filming of *Planet Earth 2* involved trips to 40 different countries with 2,089 days of filming (the equivalent of 5 years, 8 months and 21 days of continuous filming).

The advanced technology used in filming *Planet Earth 2* had not been available when the first series of *Planet Earth* was broadcast in 2006. Sir David Attenborough commented about the making of *Planet Earth 2* that '…the technology and the shots are unparalleled. You couldn't do those shots 10 years ago.' The reduced size of cameras was one particularly helpful technological advance. It meant they were easier to position and then conceal from curious animals.

Another helpful piece of technology was the drone. These small remote-controlled aircraft were used for filming in remote locations that even helicopters could not access. Whilst helpful in one sense, drones also proved problematic for the crews. It was not always possible to employ pilots experienced at flying drones in the locations used for filming. In some of the more remote locations, drones had never been flown before. This is one of the many reasons why *Planet Earth 2* was said to be ground-breaking.

32. One memorable filming sequence involved capturing the flight of golden eagles.
33. Due to the height and speed at which eagles fly, it was not possible for a camera
34. operator to track and capture them up-close on film. The team's solution was
35. radical: they strapped a mini camera onto an eagle and let it do the filming for
36. them. For this to work, they had to use a trained bird, which critics argued made the
37. finished film less authentic. It is unlikely, however, that people thought the resulting
38. film sequence was anything less than stunning.

39. One other filming innovation was to use heat technology to capture shots of animals
40. at night, such as leopards in Mumbai. This technology allowed us to see something
41. we would not otherwise have been able to see. It also emphasised certain
42. characteristics of the leopards, such as how their muscles move and even what
43. individual hairs look like. The result was magical.

---

Please answer these questions. (Look at the passage again if you need to.)
You should choose the **best** answer and mark its letter on your answer sheet.

## 16

**What is the main reason for the increasing excitement over wildlife programmes in recent years?**

**A** the increasing number of blogs and articles on them
**B** the greater variety of animals filmed
**C** the technology enabling more impressive filming
**D** the wider range of geographical locations
**E** Sir David Attenborough's popular personality

## 17

**According to Sir David Attenborough, what is the main purpose of wildlife programmes?**

**Choose TWO.**

1 They help people clear their minds.
2 They allow people to watch their favourite animals.
3 They encourage people to write articles and blogs on them.
4 They help people temporarily forget their worries about the environment.
5 They inform people about the natural world.

**A** 1 and 2
**B** 2 and 3
**C** 1 and 4
**D** 3 and 5
**E** 4 and 5

**18** **According to the passage, what about cameras has changed to improve the quality of wildlife programmes?**

**A** lens
**B** size
**C** design
**D** price
**E** speed

**19** **What has been the benefit of drones in producing better wildlife programmes?**

**A** Filming is possible in more remote locations.
**B** They are cheaper than helicopters.
**C** They cause less damage to the environment than helicopters.
**D** They do not require pilots.
**E** They have in-built cameras.

**20** **What has been a downside of using drones?**

**A** They are noisy and scare off animals.
**B** They are prone to break and require a lot of maintenance.
**C** Not many people want to be pilots of drones because they are tricky to steer.
**D** There are fewer pilots experienced at flying drones in remote locations.
**E** It is dangerous to fly drones in more remote locations.

**21** **What did the film crews use to film golden eagles?**

**A** a helicopter
**B** a drone
**C** a trained eagle
**D** a small aeroplane
**E** heat technology

**22** **What was the criticism of the alternative method of filming golden eagles?**

**A** The camera might fall off.
**B** The angle wouldn't be correct.
**C** The film sequence would be too fast.
**D** The training aspect made it less natural.
**E** People wouldn't believe it was real.

For these questions you have to **write your answers**, neatly, in the boxes provided on your answer sheet.

23 **Look at lines 16–18. How many different countries were visited during the filming of *Planet Earth 2*?**

24 **When was heat technology used to capture shots of animals?**

25 **Which three-word phrase in line 16 is closest in meaning to 'complex'?**

26 **Which six-word phrase from lines 29–30 tells us that drones had not previously been used?**

27 **Look at the sentence 'Although this is traditionally a passive activity...'** (lines 2–4)**. Write all the adverbs in this sentence.**

28 **Which ONE part of speech are the following words from the passage?**
**flight** (line 32)**, operator** (line 34)**, film** (line 37)**, shots** (line 39)

29

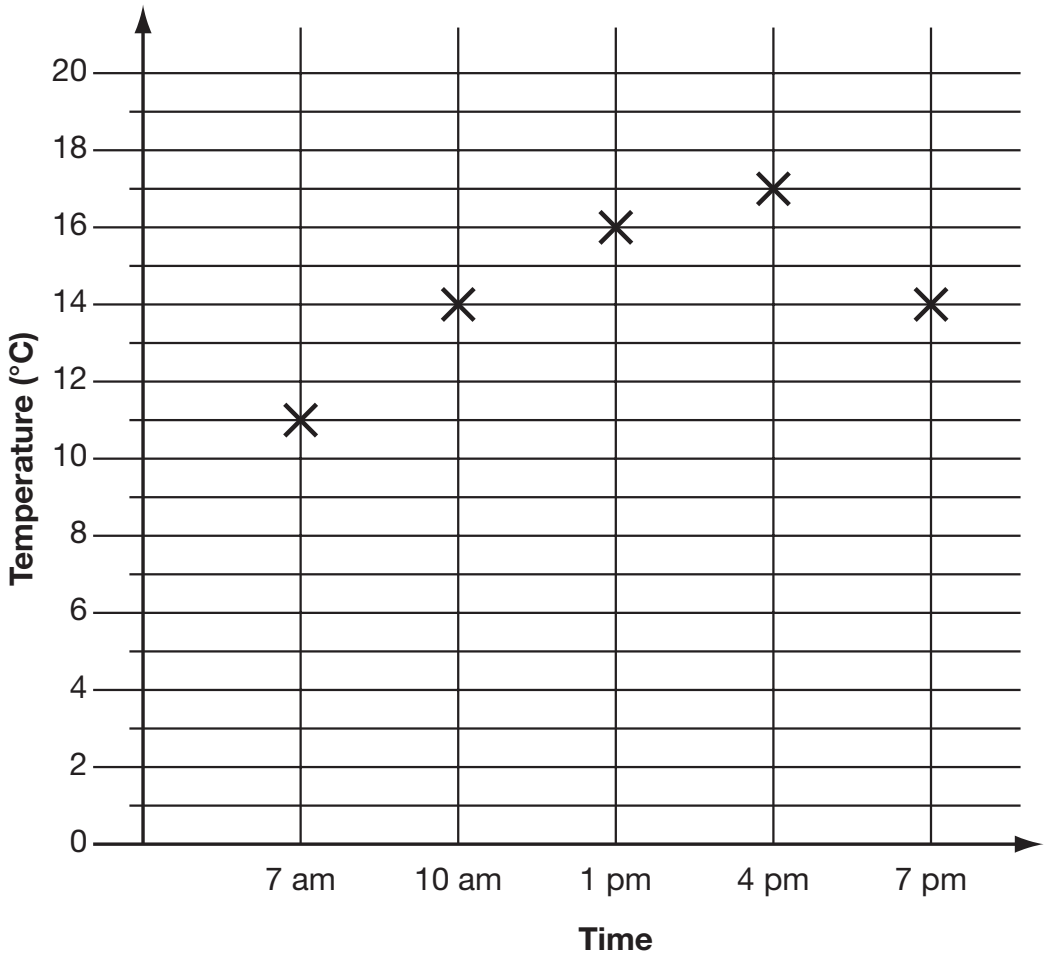


The graph shows the temperature at different times of the day.

**At what time was the highest temperature recorded?**

**A** 7 am **B** 10 am **C** 1 pm **D** 4 pm **E** 7 pm

## 30

**Which of these shows a line of symmetry?**

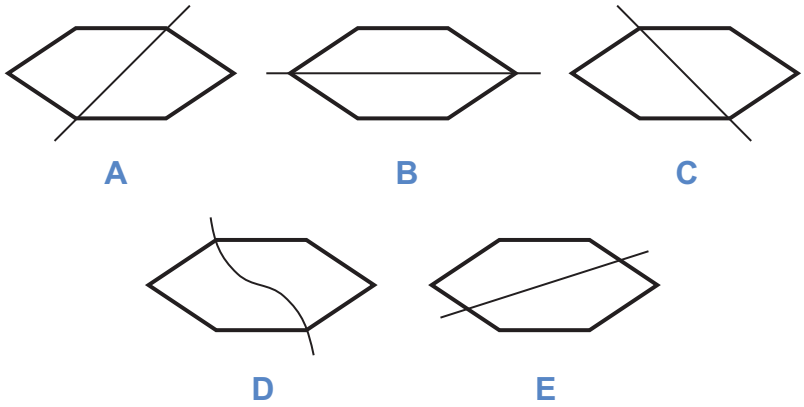


## 31

Cheryl is buying cups for a party.
The cups are sold in packs that each contain 10 cups.
Cheryl already has 50 cups and she needs 132 cups altogether for her party.

**How many more packs of cups does she need to buy?**

**A** 7 **B** 8 **C** 11 **D** 9 **E** 13

## 32

Michelle visited three stalls at the school fair. She spent £1.29 at the first stall, 88p at the second stall and £3.75 at the third stall.

**How much did she spend altogether?**

**A** £5.79
**B** £4.89
**C** £4.79
**D** £5.92
**E** £5.87

## 33

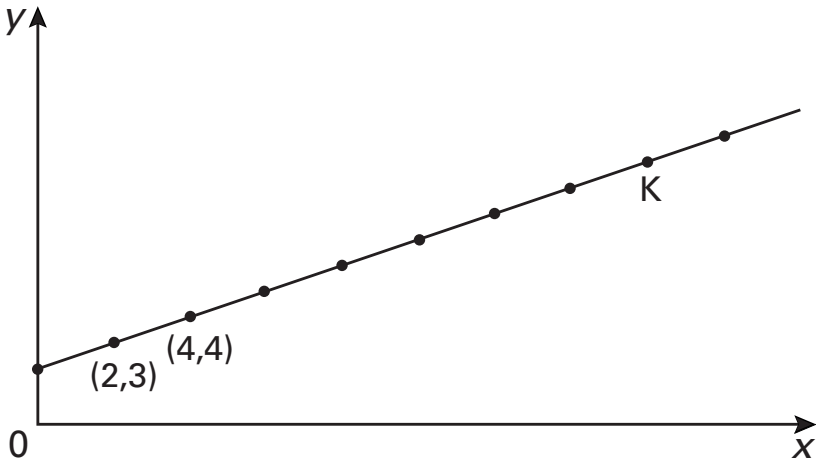


The dots on this straight line are equally spaced.

**What are the coordinates of point K?**

**A** (16 , 10) **B** (10 , 10) **C** (14 , 10) **D** (10 , 11) **E** (16 , 15)

## 34

Look at the table of race times.
The times are in minutes and seconds.

| Name | Time |
|---|---|
| Aisha | 3:15 |
| Baljeet | 2:57 |
| Cerys | 3:26 |
| Dan | 3:09 |
| Ezra | 2:59 |

**Who was exactly 12 seconds slower than the winner of the race?**

**A** Aisha **B** Baljeet **C** Cerys **D** Dan **E** Ezra

## 35

Five contestants each performed three pieces in a talent competition: song, dance and piano.
The table shows the marks they each received from three judges.

| | SONG | | | | | DANCE | | | | | PIANO | | | | |
|---|---|---|---|---|---|---|---|---|---|---|---|---|---|---|---|
| | Emily | Oliver | Joanne | Ben | Chelsea | Emily | Oliver | Joanne | Ben | Chelsea | Emily | Oliver | Joanne | Ben | Chelsea |
| **Judge W** | 8 | 9 | 7 | 9 | 6 | 7 | 8 | 6 | 7 | 7 | 6 | 6 | 9 | 7 | 8 |
| **Judge X** | 7 | 8 | 7 | 6 | 7 | 6 | 7 | 7 | 8 | 8 | 7 | 5 | 8 | 6 | 6 |
| **Judge Y** | 6 | 8 | 6 | 6 | 7 | 5 | 8 | 5 | 8 | 7 | 8 | 4 | 6 | 7 | 7 |

**Who received a lower mark from Judge Y than from Judge W for all three pieces?**

**A** Emily **B** Oliver **C** Joanne **D** Ben **E** Chelsea

## 36

**Which of these is NOT equal to $^{5}/_{20}$ ?**

**A** $^{4}/_{16}$ **B** $^{2}/_{8}$ **C** $^{10}/_{25}$ **D** $^{3}/_{12}$ **E** $^{1}/_{4}$

## 37

**Which of these is worth the most?**

**A** sixteen 20p coins
**B** forty-eight 5p coins
**C** twenty-seven 10p coins
**D** one hundred and fifteen 2p coins
**E** six 50p coins

## 38

This bus is passing under a bridge.

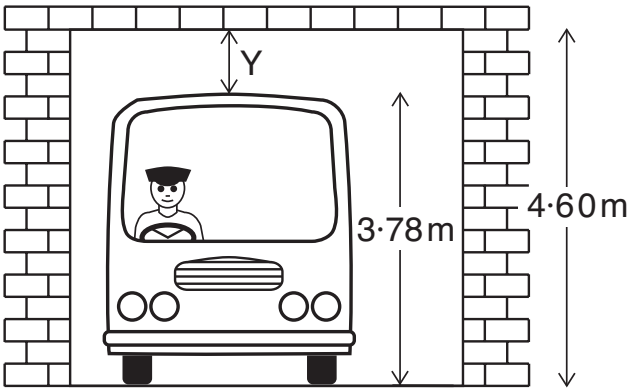


**What distance is Y?**

**A** 0.82 m **B** 1.18 m **C** 1.98 m **D** 0.98 m **E** 1.12 m

## 39

This is the calendar for September 2016.

| SEPTEMBER 2016 | | | | | | |
|---|---|---|---|---|---|---|
| **Mon** | **Tue** | **Wed** | **Thu** | **Fri** | **Sat** | **Sun** |
| | | | 1 | 2 | 3 | 4 |
| 5 | 6 | 7 | 8 | 9 | 10 | 11 |
| 12 | 13 | 14 | 15 | 16 | 17 | 18 |
| 19 | 20 | 21 | 22 | 23 | 24 | 25 |
| 26 | 27 | 28 | 29 | 30 | | |

**On what day of the week was 6 October 2016?**

**A** Tuesday
**B** Wednesday
**C** Thursday
**D** Friday
**E** Saturday

## 40

Class 6 took seven Maths tests during the term.
Erin scored:

6 8 4 6 9 8 8

**What was her mean score?**

**A** 8 **B** 7 **C** 5 **D** 9 **E** 6

## 41

The atmosphere of Mars is made up of these gases:

| Gas | Percentage (%) |
|---|---|
| carbon dioxide | 95.32 |
| nitrogen | ? |
| argon | 1.6 |
| oxygen | 0.03 |
| carbon monoxide | 0.07 |
| water vapour | 0.03 |
| other gases | 0.25 |

**Calculate the percentage that is nitrogen.**

**A** 2.7% **B** 3.24% **C** 2.64% **D** 3.3% **E** 4.68%

## 42

Caitlin wants to measure the capacity of an egg cup.

**What units should she use?**

**A** grams
**B** kilograms
**C** millilitres
**D** litres
**E** centimetres

## 43

| Time | Number of pupils |
|---|---|
| 0–30 min. | 7 |
| 31–60 min. | 5 |
| 61–90 min. | 4 |
| 91–120 min. | 2 |

The table shows how long the pupils in a class spent on their homework.

**What fraction of the class spent more than 60 minutes on their homework?**

**A** $\frac{4}{9}$ **B** $\frac{1}{9}$ **C** $\frac{1}{3}$ **D** $\frac{1}{2}$ **E** $\frac{2}{9}$

## 44

Some cyclists take part in a 400 km race
There is a checkpoint every 10 km along the route.

**How many checkpoints will the cyclists pass?**
(There is not one at the start, but there is one at the finish.)

**A** 390 **B** 410 **C** 39 **D** 4000 **E** 40

## 45

| Colour | Number |
|---|---|
| Orange | 8 |
| Black | 6 |
| Green | 16 |
| Red | 12 |
| Yellow | 6 |

A bag of jelly babies contains five different colours.
The number of each colour is shown in the table.
Rosie selects a jelly baby at random from the bag.

**What is the probability that it is red?**

**A** $\frac{1}{4}$ **B** $\frac{1}{6}$ **C** $\frac{1}{3}$ **D** $\frac{1}{8}$ **E** $\frac{1}{5}$

46

Marcus wants to heat the milk for his coffee to 58 °C.
This thermometer shows the temperature of the milk:




**Which statement about the temperature of the milk is correct?**

**A** The milk is 9 °C too hot.

**B** The milk is 9 °C too cold.

**C** The milk is 11 °C too hot.

**D** The milk is 11 °C too cold.

**E** The milk is 49 °C too cold.

## 47

**What is the tenth number in this pattern?**

256, 128, 64, 32, ____, ____, ____, ____, ____, ____

**A** −1 **B** ½ **C** 0 **D** −½ **E** 1

## 48

Three tonnes of scrap metal are processed in five minutes.

**How many tonnes are processed in 24 hours?**

**A** 720 **B** 216 **C** 1008 **D** 844 **E** 864

## 49

Sally is going on holiday to the United States.
Her grandparents give her £15 to spend.

**If every pound (£) is worth the same as 1.1 dollars ($), how many dollars does Sally have to spend?**

**A** $9 **B** $9.50 **C** $10.50 **D** $12.50 **E** $16.50

## 50

**Which of these numbers does NOT have both 3 and 7 as factors?**

**A** 42 **B** 123 **C** 147 **D** 189 **E** 105

For questions 51–56, you have to **write your answers** in the boxes provided on your answer sheet. The units of measurement have been given.

## 51

The table shows the number of matches played by three sports teams.

| Team | Matches |
|---|---|
| Red | 35 |
| Blue | |
| Green | 37 |
| TOTAL | 100 |

**How many matches did the Blue team play?**

## 52

A tree was 9.20 metres tall.
Mr Reid cut 2.58 metres from the top.

**What is the new height of the tree?**

## 53

The clocks show the time that Cheryl went to sleep one night and the time that she woke up the next morning.

**For how long did she sleep?**



Please go on to the next page >>>

54

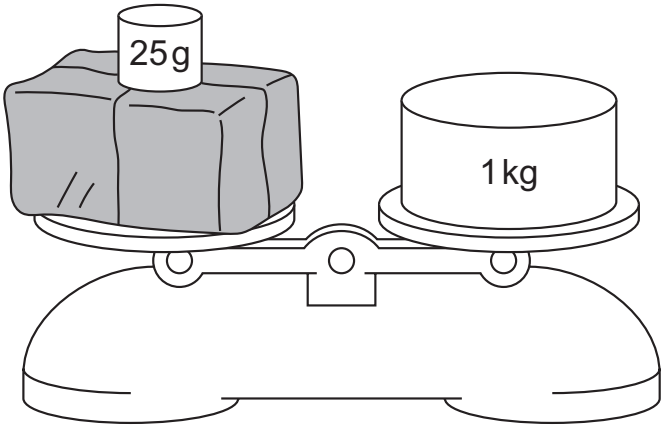


The scales in the diagram are perfectly balanced.

**How much does the parcel weigh?**

55

**How many vertices does a cuboid have?**

56

The perimeter of a rectangle is 22 cm.

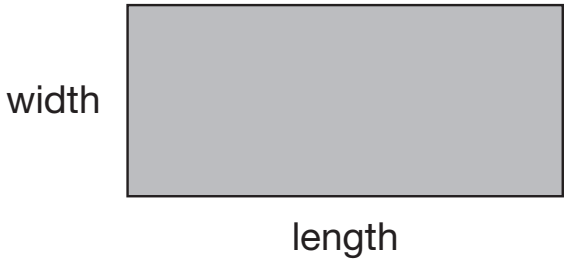


The length of the rectangle is 3 cm more than its width.

**What is the width of the rectangle?**



END OF TEST

Copyright © GL Assessment Limited, 2023.

GL Assessment Limited owns all intellectual property rights in the publication. GL Assessment Limited reserves all of its rights in the publication, including translation.

You are not allowed to do any of the following without GL Assessment Limited's permission:

- make a copy of it in any way (for example by hand, a photocopy or a photo on your phone)

The above restrictions apply to the publication as a whole or any part/section of it.

There is no arrangement in place with the Copyright Licensing Agency Limited (CLA) which would allow you to make a copy.

Published by GL Assessment, 1st Floor, Vantage London, Great West Road, Brentford TW8 9AG.

1(02.23) PF